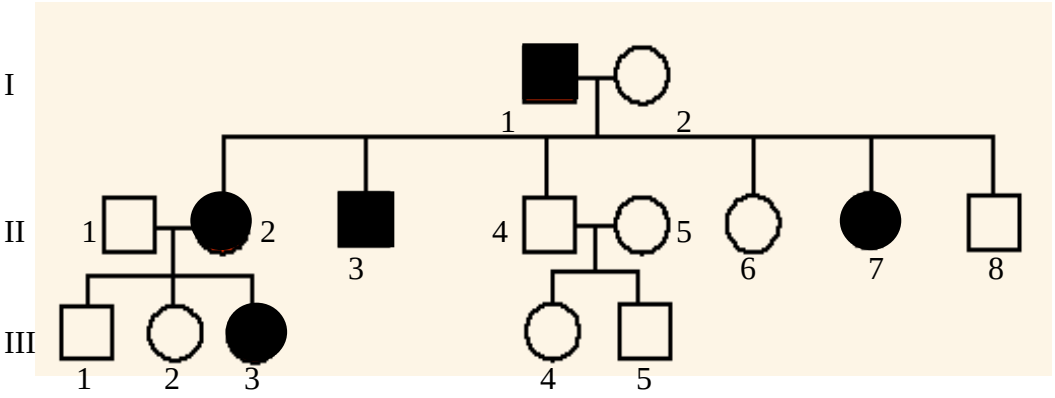
Pedigree Worksheet **Name** _____



= Huntington's Disease

1. Which members of the family above are afflicted with Huntington's Disease? _____

2. There are no carriers for Huntington's Disease- you either have it or you don't.
With this in mind, is Huntington's disease caused by a dominant or recessive trait? _____

3. How many children did individuals I-1 and I-2 have? _____

4. How many girls did II-1 and II-2 have? _____ How many have Huntington's Disease? _____

5. How are individuals III-2 and II-4 related? _____ I-2 and III-5? _____

---

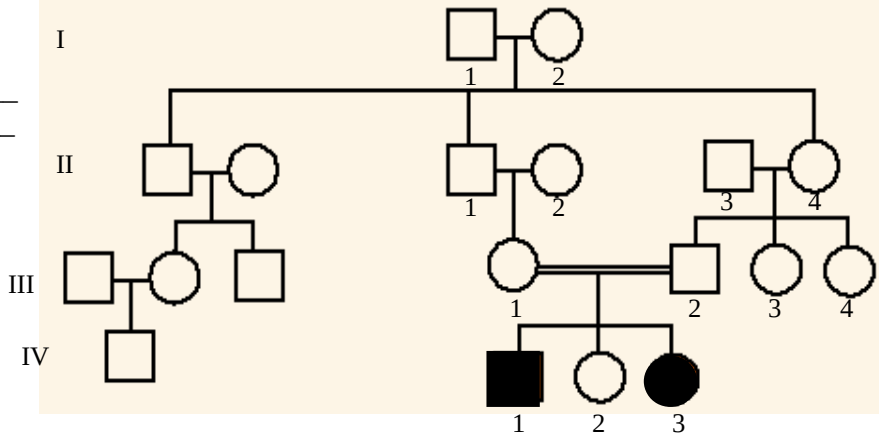
6. The pedigree to the right shows a family's pedigree for Hitchhiker's Thumb. Is this trait dominant or recessive? _____

7. How do you know? _____
_____

8. How are individuals III-1 and III-2 related? _____

9. How would you name the 2 individuals that have hitchhiker's thumb? _____

10. Name the 2 individuals that were carriers of hitchhiker's thumb. _____



11. Is it possible for individual IV-2 to be a carrier? _____ Why? _____

---

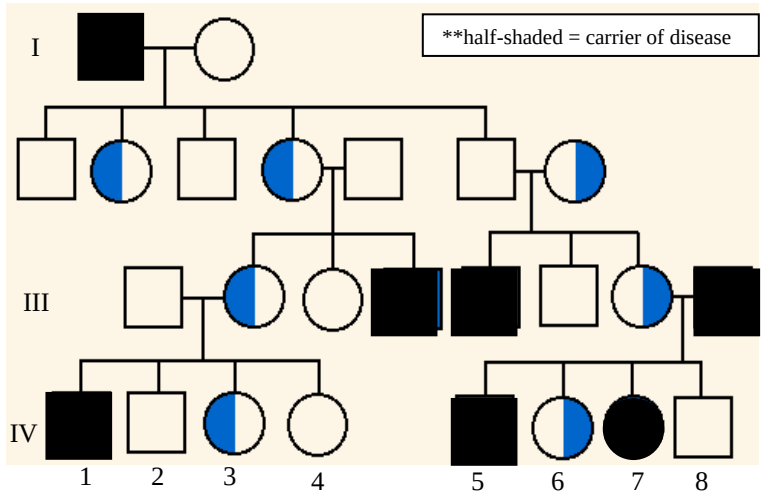
12. The pedigree to the right shows a family's pedigree for colorblindness. Which sex can be carriers of colorblindness and not have it? _____

13. With this in mind, what kind of trait is colorblindness (use your notes)? _____

14. Why does individual IV-7 have colorblindness?
_____

15. Why do all the daughters in generation II carry the colorblind gene? _____

16. Name 2 IV generation colorblind males. _____



Name _____

Genetics Pedigree Worksheet

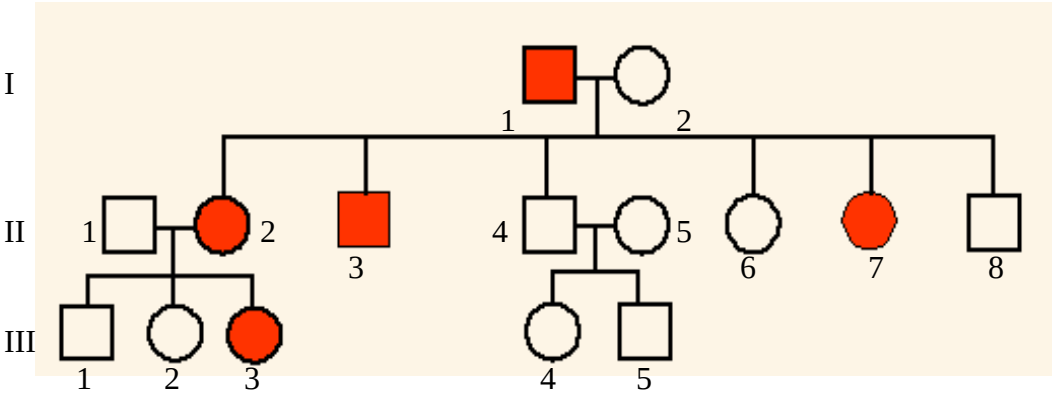
A pedigree is a chart of a person's ancestors that is used to analyze genetic inheritance of certain traits – especially diseases. The symbols used for a pedigree are:

○ female, unaffected	□ male, unaffected
● female, affected	■ male, affected

- Siblings are placed in birth order from left to right and are labeled with numbers.
- Each generation is labeled with a Roman numeral.
  - Example: we would name an individual II-3 if he/she was in the second generation and the 3rd child born

- - - -

Pedigree Worksheet **ANSWER KEY**



= Huntington's Disease

1. Which members of the family above are afflicted with Huntington's Disease? **I1, II2, II3, II7, III3**

2. There are no carriers for Huntington's Disease- you either have it or you don't.
   With this in mind, is Huntington's disease caused by a dominant or recessive trait? **Dominant**

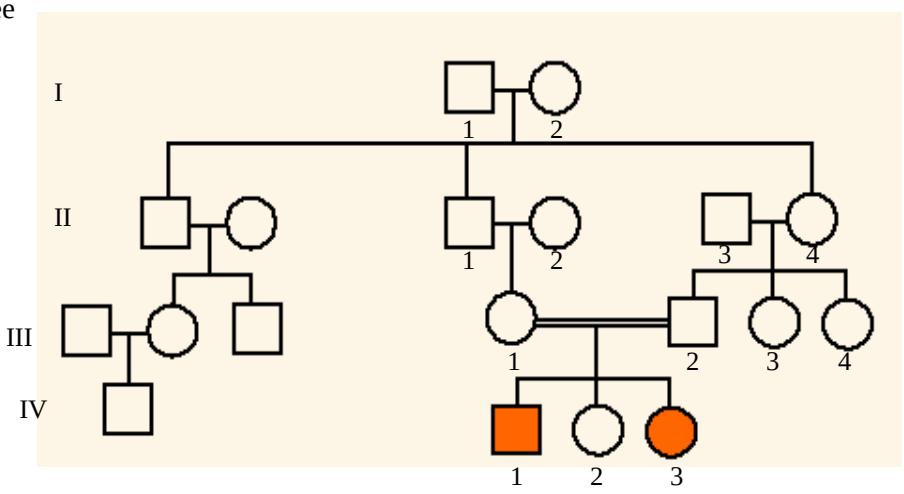
3. How many children did individuals I-1 and I-2 have? **6**

4. How many girls did II-1 and II-2 have? **2** How many have Huntington's Disease? **1 or 5**

5. How are individuals III-2 and II-4 related? **Uncle/Niece** I-2 and III-5? **Grandma/Grandson**

---

6. The pedigree to the right shows a family's pedigree for Hitchhiker's Thumb. Is this trait dominant or recessive? **Recessive**



7. How do you know? **III1 and III2 do not have it but their children do.**

8. How are individuals III-1 and III-2 related? **Cousins/Marriage**

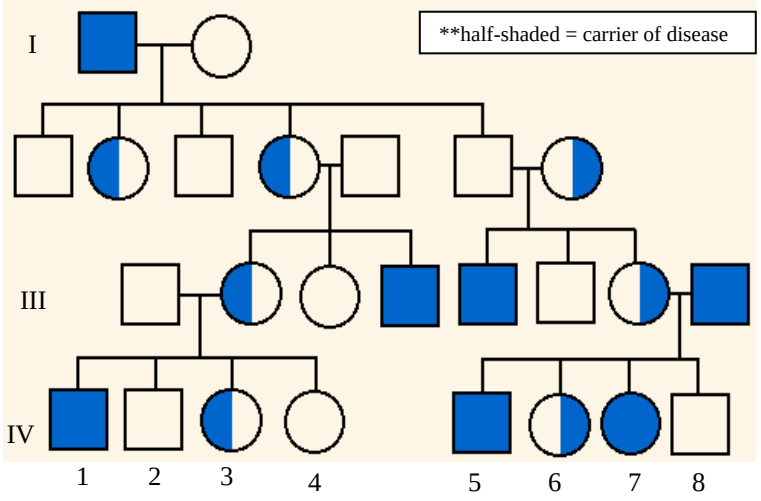
9. How would you name the 2 individuals that have hitchhiker's thumb? **IV1 and IV3**

10. Name the 2 individuals that were carriers of hitchhiker's thumb. **III1 and III2**

11. Is it possible for individual IV-2 to be a carrier? **Yes** Why? **b/c parents were heterozygous**

---

12. The pedigree to the right shows a family's pedigree for colorblindness. Which sex can be carriers of colorblindness and not have it? **Females**



13. With this in mind, what kind of trait is colorblindness (use your notes)? **Sexlinked/recessive**

14. Why does individual IV-7 have colorblindness?
b/c mom was a carrier and dad was affected

15. Why do all the daughters in generation II carry the colorblind gene? **b/c dad was affected and its on the X**

16. Name 2 IV generation colorblind males. **IV1, IV5**

Pedigree Worksheet **ANSWER KEY**

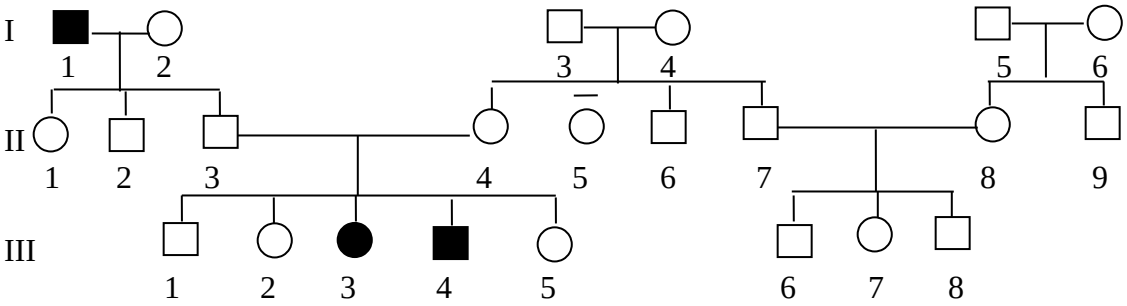
Genetics Pedigree Worksheet

A pedigree is a chart of a person's ancestors that is used to analyze genetic inheritance of certain traits – especially diseases. The symbols used for a pedigree are:

○ female, unaffected	□ male, unaffected
● female, affected	■ male, affected

- Siblings are placed in birth order from left to right and are labeled with numbers.
- Each generation is labeled with a Roman numeral.
  - Example: we would name an individual II-3 if he/she was in the second generation and the 3rd child born

---



Try to identify the genotypes of the following individuals using the pedigree above.
(homozygous dominant, homozygous recessive, heterozygous)

- III-3: **Homozygous recessive**
- II-1: **Heterozygous**
- I-1: **Homozygous recessive**
- II-4: **Heterozygous**

1. Is this trait dominant or recessive? Explain your answer.

It is a recessive trait because generation II does not have the disease and Generations I and II do have it.

2. How can you know for sure that individuals II-3 and II-4 are heterozygous?

Because their offspring have the disease so they are both carriers of it.

3. Brown eyes are a dominant eye-color allele and blue eyes are recessive. A brown-eyed woman whose father had blue eyes and whose mother had brown eyes marries a brown-eyed man whose parents are also brown-eyed. They have a son who is blue-eyed. Please draw a pedigree showing all four grandparents, the two parents, and the son. Indicate which individuals you are certain of their genotype and where there are more than one possibilities.